1. Akira ដុតបំភ្លឺទៀនដូចគ្នាចំនួន 5 ក្នុងពេលតែមួយ។ទៀនបានរលត់នៅពេលផ្សេងគ្នាហើយឥឡូវនេះមើលទៅដូចដែលបានបង្ហាញនៅក្នុងរូបភាព។តើទៀនមួយណារលត់មុនគេ?

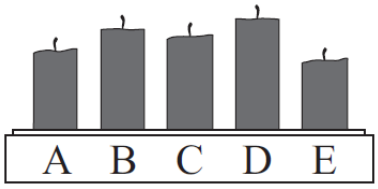

(A) A (B) B (C) C (D) D (E) E

2. កាក់ 2 ដែលមានសញ្ញាសួរ មានតម្លៃស្មើគ្នា។ តើតម្លៃវាស្មើប៉ុន្មាន?

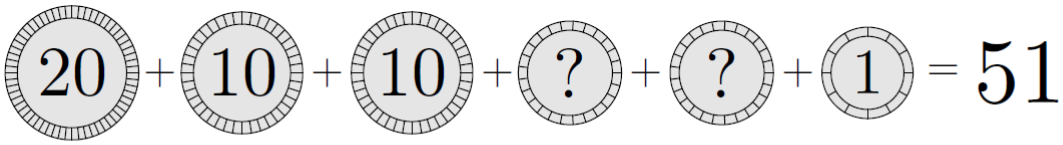

(**A**) 1 (**B**) 2 (**C**) 5 (**D**) 10 (**E**) 20

3. រង្វង់ពណ៌ប្រផេះដែលមានរន្ធធំៗចំនួន 2 ត្រូវបានដាក់នៅលើនាឡិកា ដូចដែលបានបង្ហាញ។

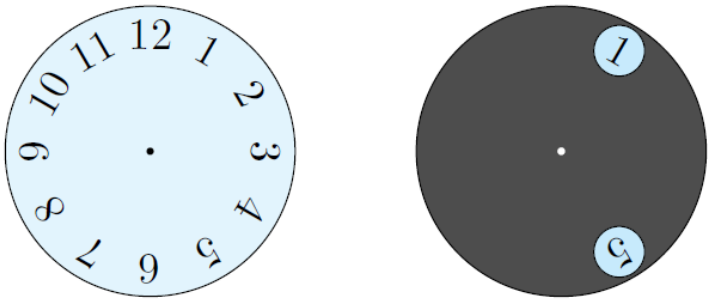

រង្វង់ពណ៌ប្រផេះត្រូវបានបង្វិល។ តើ 2 លេខណាដែលអាចមើលឃើញក្នុងពេលតែមួយ?

(A) 4 និង 9 (B) 5 និង 9 (C) 5 និង10 (D) 6 និង 9 (E) 7 និង 12

4. Alice មានបំណែកផ្គុំរូបទាំងនេះ៖

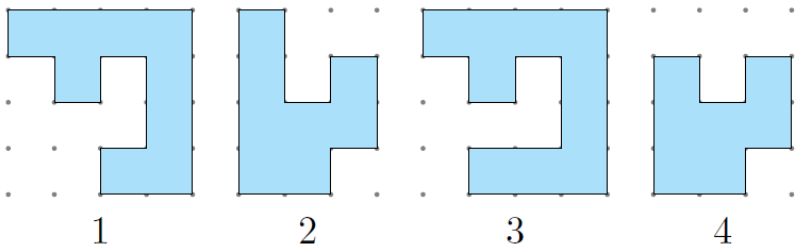

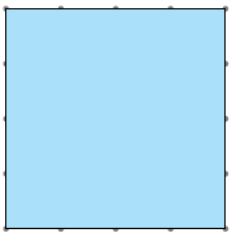

តើ 2 បំណែកណាដែលនាងអាចដាក់បញ្ចូលគ្នាដើម្បីបង្កើតជាការនេះ?

(A) 1 និង 2 (B) 1 និង 3 (C) 1 និង 4

(D) 2 និង 3 (E) 2 និង 4

1. Akira lits 5 identical candles all at the same time.
They stopped burning at different times and now look as shown in the picture.
Which candle stopped burning first?



(**A**) A (**B**) B (**C**) C (**D**) D (**E**) E

2. The 2 kangaroo coins with the question mark on have the same value.
What is this value?

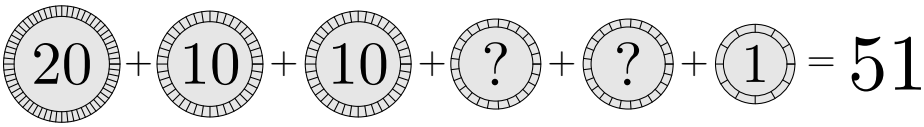

(**A**) 1 (**B**) 2 (**C**) 5 (**D**) 10 (**E**) 20

3. A gray circle with 2 large holes in it is put on top of a clock-face, as shown.

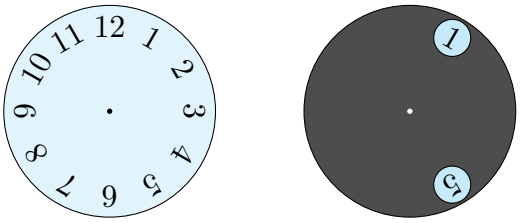

The gray circle is turned around its center.
Which 2 numbers is it possible to see at the same time?

(**A**) 4 and 9 (**B**) 5 and 9 (**C**) 5 and 10 (**D**) 6 and 9 (**E**) 7 and 12

4. Alice has these puzzle pieces:

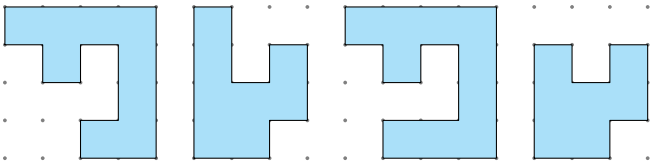

1 2 3 4

Which 2 pieces can she put together to form this square?

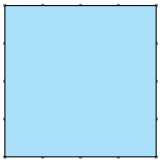

(**A**) 1 and 2 (**B**) 1 and 3 (**C**) 1 and 4 (**D**) 2 and 3 (**E**) 2 and 4

5. វិស្វករម្នាក់នៅក្នុងរោងមហោស្រពមួយកំពុងបើក និងបិទភ្លើង។ គាត់ប្រើគម្រោងដែលបានបង្ហាញ។ តើភ្លើងពីរត្រូវបានបើកក្នុងពេលតែមួយសរុបមានរយៈពេលប៉ុន្មាន?



(A) 2 នាទី (B) 6 នាទី (C) 8 នាទី (D) 9 នាទី (E) 10 នាទី

6. Kristoffer បត់ក្រដាសថ្លាតាមបន្ទាត់ដាច់ៗដូចបានបង្ហាញ ។

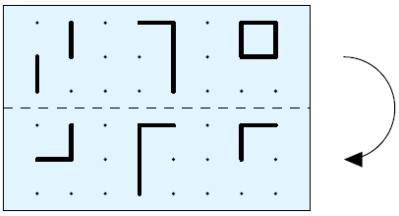

តើគាត់នឹងឃើញរូបភាពបែបណា?

(A) 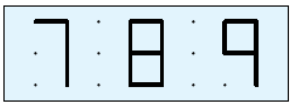
(B) 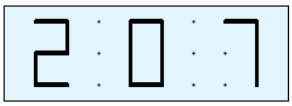
(C) 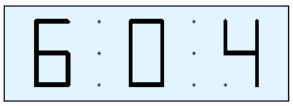
(D) 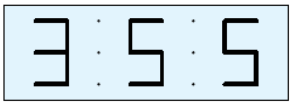
(E) 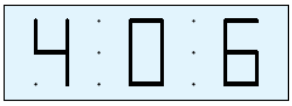

7. Anna មាន 4 ឌីសដែលមានទំហំខុសៗគ្នា។ នាងចង់សង់ប៉ម មួយដែលមានឌីសចំនួន 3 ដែលឌីសនីមួយៗមានទំហំតូចជាងឌីសនៅខាងក្រោមវា។

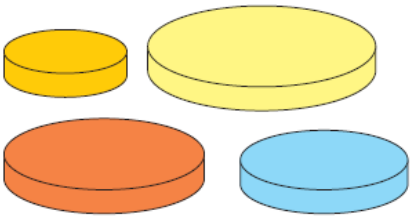

តើ Anna អាចបង្កើតប៉ម ផ្សេងគ្នាចំនួនប៉ុន្មាន?

(A) 1 (B) 2 (C) 4 (D) 5 (E) 6

8. Danny បានបិទក្រដាសពីរសន្លឹក ទៅលើរង្វង់ខ្មៅនេះ
តើរូបមួយណាដែលគាត់មិនអាចទទួលបាន?

(A)
(B)
(C)
(D)
(E) 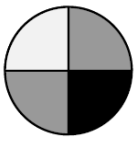

5. A light engineer in the theatre turns the lights on and off.
She uses the plan shown.
How long in total are exactly 2 of the lights on at the same time?

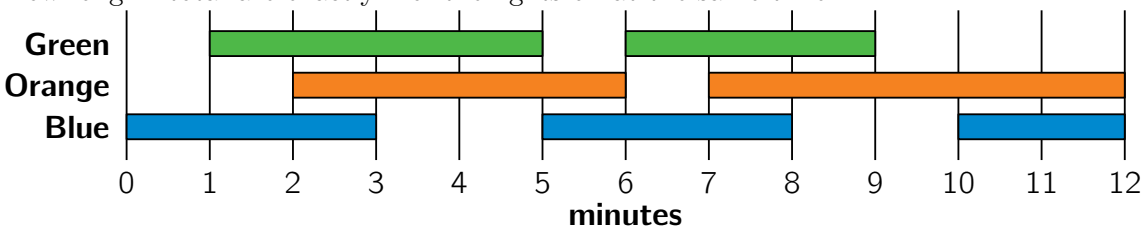

(**A**) 2 minutes (**B**) 6 minutes (**C**) 8 minutes (**D**) 9 minutes (**E**) 10 minutes

6. Kristoffer folds the transparent paper along the dashed line.

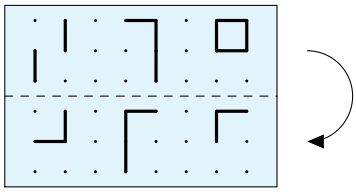

What can he then see?

(**A**) 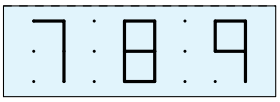

(**B**) 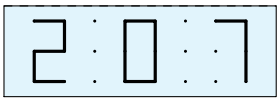

(**C**) 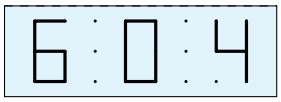

(**D**) 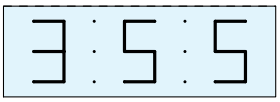

(**E**) 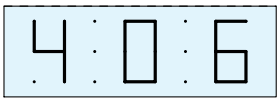

7. Anna has 4 discs of different sizes.
She wants to build a tower of 3 discs so that every disc is smaller than the disc below it.
How many different towers can Anna make?

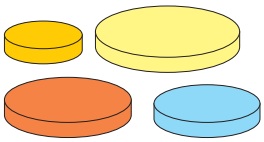

(**A**) 1 (**B**) 2 (**C**) 4 (**D**) 5 (**E**) 6

8. Danny glued the 2 pieces of paper on top of the black circle on the right.



What can he not obtain?

(**A**)

(**B**) 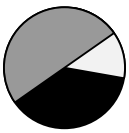

(**C**) 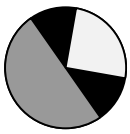

(**D**) 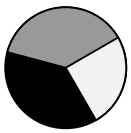

(**E**) 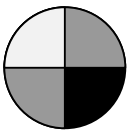

9. រូបនៅខាងស្តាំត្រូវបានគ្របដណ្តប់ដោយ 5 បំណែកខាងក្រោម។ តើបំណែកមួយណានឹងគ្របដណ្តប់លើចំណុចខ្មៅ?

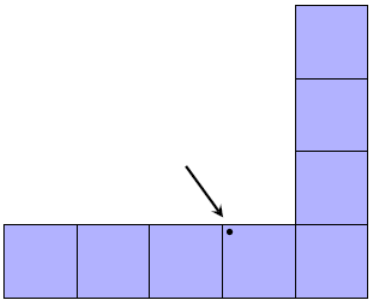

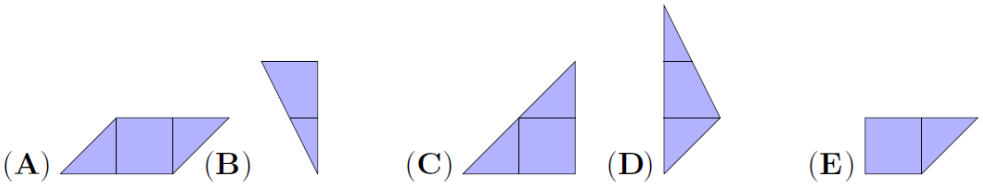

10. មានដុំទម្ងន់ចំនួន 6 គឺ 1, 2, 3, 4, 5 និង 6 គីឡូក្រាម។ Rossitza ដាក់ប្រាំទម្ងន់នៅលើជញ្ជីង ដូចរូប។ ជញ្ជីងមានលំនឹង។ តើទម្ងន់មួយណាដែលនាងទុកមួយឡែក?

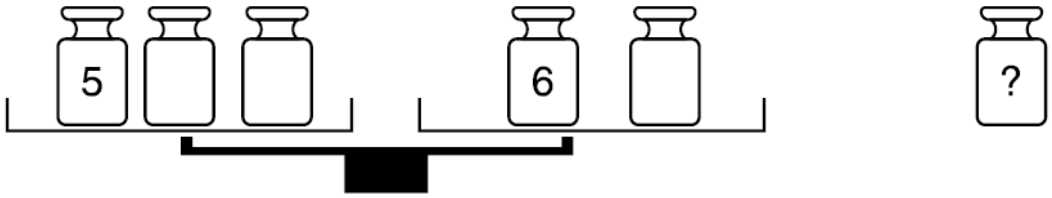

(A) 1 kg (B) 2 kg (C) 3 kg (D) 4 kg (E) មិនអាចប្រាកដបាន

11. Aly មានបន្ទាត់មួយដែលមានប្រវែង 60 សង់ទីម៉ែត្រ។ ជាអកុសល សញ្ញាសម្គាល់មួយចំនួនបានរលប់។ គាត់អាចវាស់ប្រវែង 10, 20, 30, 40, 50 និង 60 សង់ទីម៉ែត្រដោយប្រើបន្ទាត់របស់គាត់តែម្តងគត់។ តើមួយណាជាបន្ទាត់របស់ Aly ?

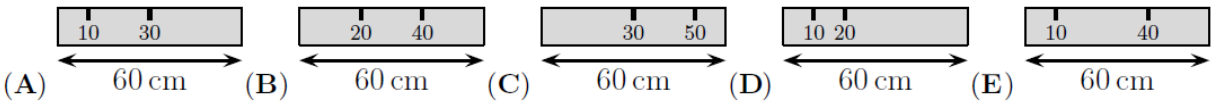

12. មានផ្ទះចំនួន 7 ខ្នងនៅខាងជើងផ្លូវ A។ មានផ្ទះ 8 ខ្នងនៅខាងកើតផ្លូវ B និងមានផ្ទះ 5 ខ្នងនៅខាងត្បូងផ្លូវ A។ តើផ្ទះដែលនៅខាងលិចផ្លូវ B មានប៉ុន្មានខ្នង?

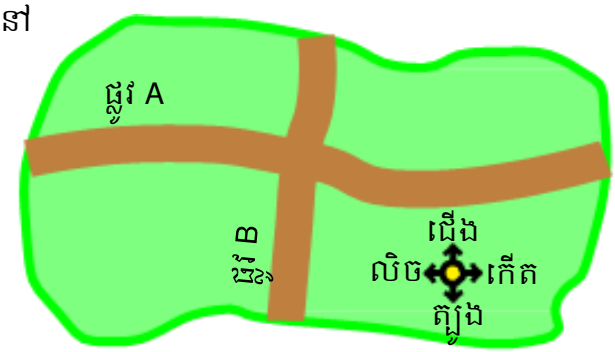

(A) 4
(B) 5
(C) 6
(D) 7
(E) 8

9. The shape on the right is covered with the 5 pieces below.
Which piece will cover the dot?

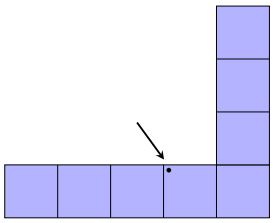

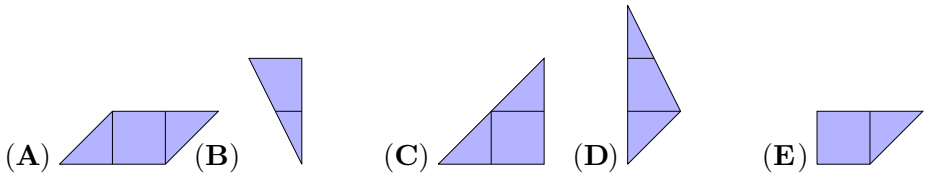

10. There are six weights of 1, 2, 3, 4, 5 and 6 kg.
Rossitza puts five of them on the scales and puts one weight aside.
The scales balance.
Which weight did she put aside?

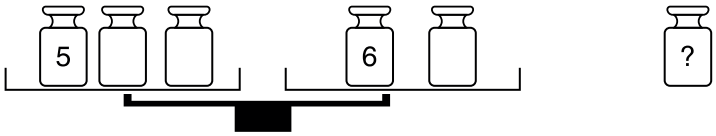

(**A**) 1 kg (**B**) 2 kg (**C**) 3 kg (**D**) 4 kg (**E**) can't be sure

11. Ali has a 60 cm ruler.
Unfortunately, some of the markings have faded away.
He is able to measure any of the lengths 10, 20 , 30 , 40 , 50 and 60 cm using his ruler only once.
Which is Ali's ruler?

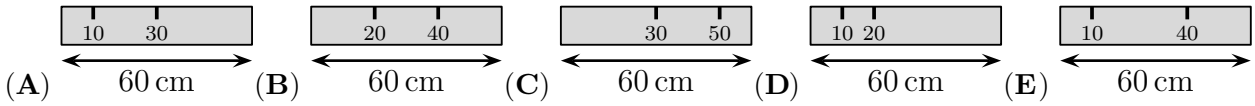

12. There are 7 houses north of Road A, 8 houses east of Road B and 5 houses south of Road A.
How many houses are west of Road B?

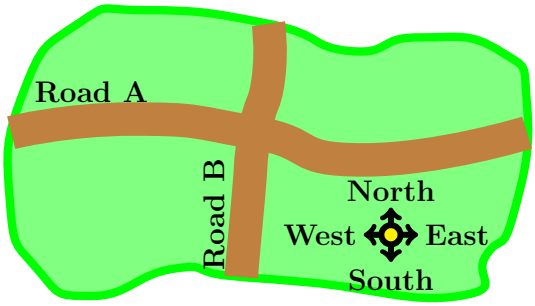

(**A**) 4
(**B**) 5
(**C**) 6
(**D**) 7
(**E**) 8

13. There are 8 cars waiting in a queue for the ferry.
Every car contains either 2 or 3 people.
There are 19 people in total waiting for the ferry.
How many cars contain exactly 2 people?

(**A**) 2 (**B**) 3 (**C**) 4 (**D**) 5 (**E**) 6

13. មានរថយន្តចំនួន 8 គ្រឿងដែលកំពុងរង់ចាំនៅក្នុងជួរដើម្បីឡើងសាឡាង។ ឡានតូចមួយៗផ្ទុកមនុស្ស 2 ឬ 3 នាក់។មានមនុស្សសរុប 19 នាក់កំពុងរង់ចាំសាឡាង។ តើមានរថយន្តប៉ុន្មានគ្រឿងដែលផ្ទុកមនុស្ស 2 នាក់?

(A) 2 (B) 3 (C) 4 (D) 5 (E) 6

14. ខ្សែរថភ្លើងក្រោមដីមាន 6 ស្ថានីយ៍ A, B, C, D, E និង F ។ រថភ្លើងឈប់នៅគ្រប់ស្ថានីយ៍។ នៅពេលដែលវាទៅដល់ស្ថានីយមួយក្នុងចំណោមស្ថានីយចុងក្រោយទាំងពីរ វាផ្លាស់ប្តូរទិសដៅរបស់វា។ អ្នកបើកបររថភ្លើងបានចាប់ផ្តើមបើកបរនៅស្ថានីយ៍ B ហើយចំណតដំបូងរបស់នាងគឺស្ថានីយ៍ C ។ តើស្ថានីយមួយណានឹងក្លាយជាចំណតទី 96 របស់នាង?

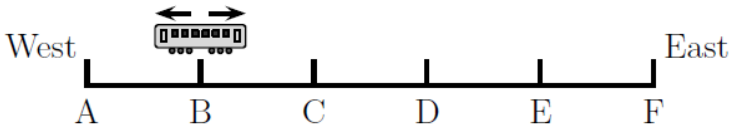

(A) A (B) B (C) C (D) D (E) E

15. Hatice ចង់ជាត់ពណ៌រង្វង់ក្នុងរូប។ នាងចង់ជាត់ពណ៌រង្វង់ពីរដែលតភ្ជាប់ជាមួយបន្ទាត់មួយមានពណ៌ផ្សេងគ្នា។ តើនាងត្រូវការចំនួនពណ៌តិចបំផុតប៉ុន្មាន?

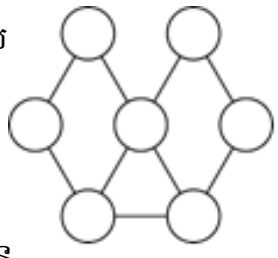

(A) 2 (B) 3 (C) 4
(D) 5 (E) 6

16. Sam ដើរកាត់ក្នុងផ្ទះថ្មីរជាន់ពីច្រកចូលទៅច្រកចេញកាត់ផ្ទាំងបិតជញ្ជាំងចំនួន 3 ។ តើនាងនឹងឃើញផ្ទាំងបិតជញ្ជាំងទាំងនោះក្នុងលំដាប់ណា?

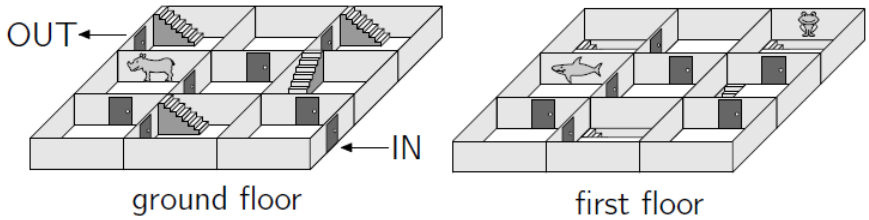

(A) (B) (C) (D) (E)

17. សត្វខ្លាចំនួន 6 ក្បាល និងសត្វកង់ហ្គារ៉ូ 2 ក្បាលកំពុងឈរជាជួរ។ ក្នុងចំណោមសត្វបីដែលជាលេខជាប់តគ្នា មាន 1ជាសត្វកង់ហ្គារ៉ូ។ តើសត្វមានលេខមួយណាជាសត្វកង់ហ្គារ៉ូ?

(A) 1 (B) 2 (C) 3 (D) 4 (E) 5

14. The Metro line has 6 stations, A, B, C, D, E, and F.
The train stops at every station.
When it reaches one of the two end stations, it changes its direction.
The train driver started driving at station B and her first stop was station C.
Which station will be her 96th stop?

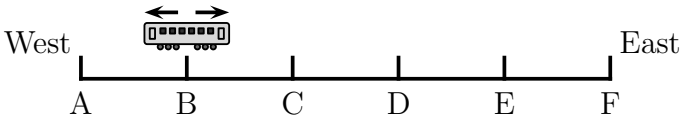

(**A**) A (**B**) B (**C**) C (**D**) D (**E**) E

15. Hatice wants to paint the circles in the picture.
She wants to paint any 2 circles connected with a line different colours.
What is the smallest number of colours she needs?

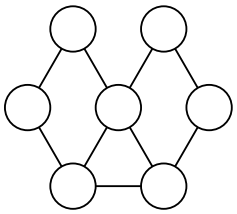

(**A**) 2 (**B**) 3 (**C**) 4
(**D**) 5 (**E**) 6

16. Sam walks through the two-storey maze from the entrance to the exit, passing 3 wall stickers.
In what order will she see them?

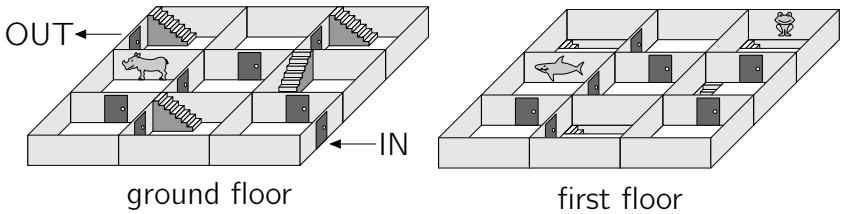

(**A**) (**B**) (**C**) (**D**) (**E**)

5 points

17. 6 beavers and 2 kangaroos are standing in a line.
Amongst any 3 consecutively numbered animals, exactly 1 is a kangaroo.
Which numbered animal is a kangaroo?

(**A**) 1 (**B**) 2 (**C**) 3 (**D**) 4 (**E**) 5

18. Rebecca folds a square piece of paper twice.
Then she cuts off one corner.
Next, she unfolds the paper.
What does the paper look like once unfolded?

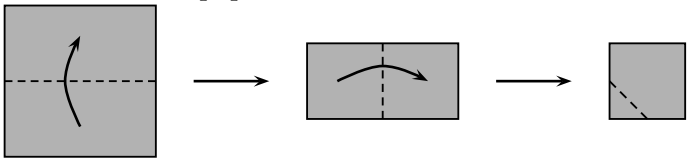

(**A**) 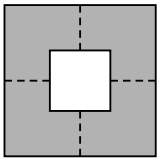 (**B**) 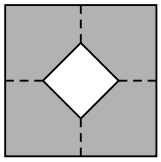 (**C**) 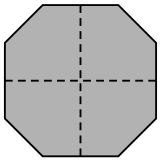 (**D**) 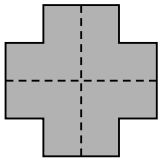 (**E**) 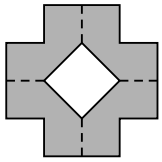

18. Rebecca បត់ក្រដាសការេពីរដងដូចរូប។ បន្ទាប់មកនាងកាត់ជ្រុងម្ខាង។ បន្ទាប់មកនាងលាតក្រដាសវិញ។ តើក្រដាសនោះមើលទៅដូចម្តេចពេលលាតវិញ?

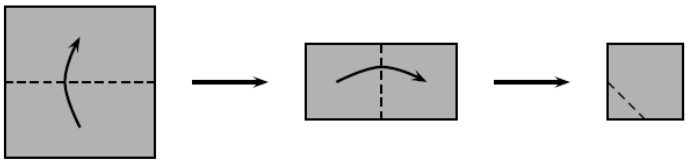

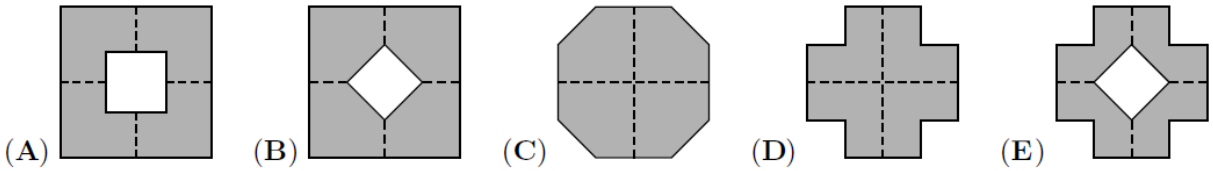

19. Hermione, Harry និង Ron ដើរចូលទៅក្នុងបន្ទប់រួមម្តងមួយៗ។ Hermione មិនមែនជាអ្នកដែលចូលក្នុងបន្ទប់មុនគេ។ Harry មិនមែនជាអ្នកទីពីរដែលចូលក្នុងបន្ទប់ ហើយ Ron មិនមែនជាអ្នកទីបីដែលចូលក្នុងបន្ទប់។ តើពួកគេអាចដើរចូលក្នុងបន្ទប់បានប៉ុន្មានរបៀប?

(A) 1 (B) 2 (C) 3 (D) 4 (E) 6

20. មាននាឡិកាប្រាំនៅលើជញ្ជាំង។ គេដឹងថានាឡិកាមួយដើរលឿនមួយម៉ោង នាឡិកាមួយដើរយឺតមួយម៉ោង នាឡិកាមួយបង្ហាញពេលវេលាត្រឹមត្រូវ ហើយនាឡិកាពីរទៀតមិនដំណើរការ។ តើនាឡិកាមួយណាបង្ហាញពេលវេលាត្រឹមត្រូវ?

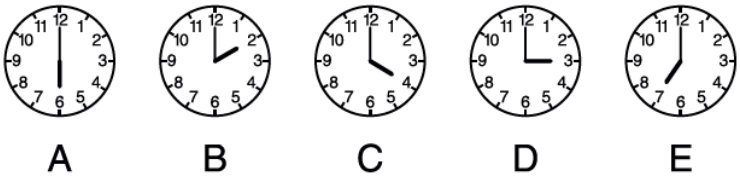

(A) A (B) B (C) C (D) D (E) E

21. Adam និង Brenda មានឃ្លីម្នាក់ 9 គ្រាប់។ បើរួមបញ្ចូលគ្នា ពួកគេមានឃ្លីក្រហមចំនួន 8 និងខៀវចំនួន 10 គ្រាប់។ Brenda មានឃ្លីខៀវច្រើនជាងឃ្លីក្រហមពីរដង។ តើ Adam មានឃ្លីខៀវប៉ុន្មានគ្រាប់?



(A) 3 (B) 4 (C) 5

(D) 6 (E) 0

19. Hermione, Harry and Ron always walk into the common room one at a time.
Hermione is never first, Harry is never second and Ron is never third.
In how many different orders could they walk in?

(**A**) 1 (**B**) 2 (**C**) 3 (**D**) 4 (**E**) 6

20. There are five clocks on the wall.
It is known that one clock is an hour fast, one clock is an hour slow,
one clock shows the correct time and two clocks have stopped.
Which clock shows the correct time?

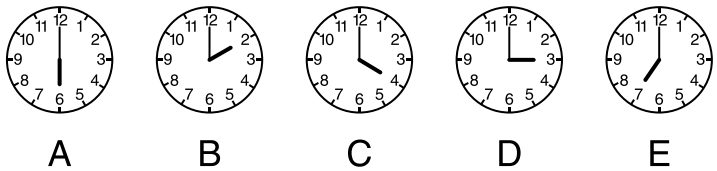

(**A**) A (**B**) B (**C**) C (**D**) D (**E**) E

21. Adam and Brenda have 9 marbles each.
Together, they have 8 red and 10 blue marbles.
Brenda has twice as many blue marbles as red marbles.
How many blue marbles does Adam have?



(**A**) 3 (**B**) 4
(**C**) 5 (**D**) 6
(**E**) 0

22. Else has two machines.
When she puts a square sheet of paper in machine R, it turns the paper 90° clockwise, as shown in the picture.

When she puts the paper in machine S, it stamps the paper with a ♣.

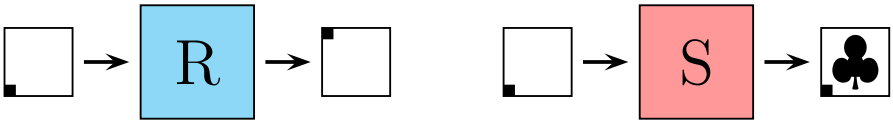

In which order are the machines used to produce the result shown?

(**A**) SRR (**B**) RSR (**C**) RSS (**D**) RRS (**E**) SRS

22. Else មានមាស៊ីនពីរ។ មាស៊ីន R បង្វិលក្រដាស 90◦ តាមទ្រនិចនាឡិកា។ មាស៊ីន S បោះត្រា

សញ្ញា ♣ លើក្រដាស។

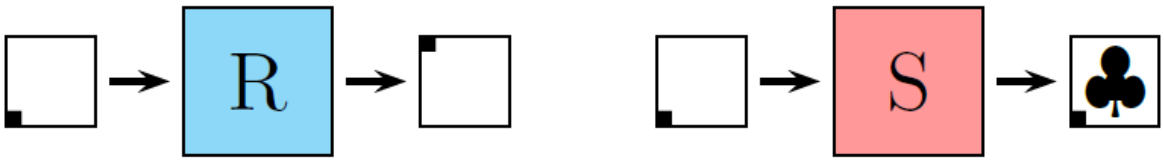

តើគេប្រើម៉ាស៊ីនក្នុងលំដាប់ណាដើម្បីបង្កើតរូបភាពដែលបានបង្ហាញ?

(A) SRR (B) RSR (C) RSS (D) RRS (E) SRS

23. Olena ចង់សរសេរលេខ 1 ដល់ 7 ក្នុងរង្វង់។ នៅក្នុងរង្វង់នីមួយៗនាងសរ

សេរ 1 លេខ។ នាងចង់ឱ្យផលបូកនៃលេខក្នុងរង្វង់ 2 ដែលនៅជាប់គ្នាដូច

បានបង្ហាញ។ តើនាងត្រូវសរសេរលេខអ្វីនៅក្នុងរង្វង់ពណ៌បៃតង/ស្រមោល?

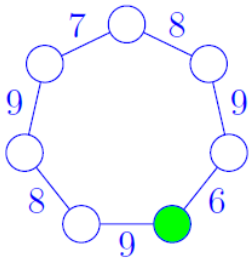

(A) 1 (B) 2 (C) 3 (D) 4 (E) 5

24. Maria បានគូរស្រមោលចំនួន 5 នៅក្នុងក្រឡាចត្រង្គ 4 × 4 ។ នាងប្រជែងមិត្តភ័ក្តិរបស់នាង

ចំនួន 5 នាក់ដើម្បីទាយថាក្រឡាចត្រង្គមួយណាដែលនាងបានគូរស្រមោល។ ក្រឡាចត្រង្គ

ដែលពួកគេបានគូរត្រូវបានបង្ហាញខាងក្រោម។ Maria ក្រឡេកមើលពួកគេហើយនិយាយថា៖

"មួយក្នុងចំណោមវាត្រូវ ហើយក្រឡាចត្រង្គផ្សេងទៀតមានក្រឡាចំនួនបួនបានគូរស្រមោល

ត្រឹមត្រូវ" ។ តើមួយណាជាចម្លើយត្រឹមត្រូវ?

(A)  (B)  (C)  (D)  (E) 

23. Teacher Olena wants to write the numbers 1 to 7 in the circles.
Inside each circle she writes 1 number.
She wants the sum of the numbers in 2 circles that are next to each other to be as shown.
What number must she write inside the green/shaded circle?

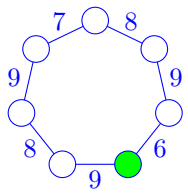

(**A**) 1 (**B**) 2 (**C**) 3 (**D**) 4 (**E**) 5

24. Maria has shaded exactly 5 cells in a 4×4 grid.
She challenges 5 of her friends to guess which cells she has shaded.
The grids they have drawn are shown below.
Maria looks at them and says: "One of you is right and each of the rest of you has four cells correct."
Which is the correct answer?

(**A**) 
(**B**) 
(**C**) 
(**D**) 
(**E**)