1. Which of the following answer is correct?

A) $2059 = 2095$ **B)** $2059 > 2095$ **C)** $2095 < 2059$ **D)** $2095 > 2059$

2. Which of the following is equal to 32?

A) $312 \div 5$ **B)** $224 \div 7$ **C)** $324 \div 3$ **D)** $129 \div 4$

3. Which one is an angle?

A)

B)

C)

D) 

4. Which of the following has the same value as $4\,000 + 700 + 50 + 3$?

A) 4 753 **B)** 47 503 **C)** 470 503 **D)** 4 000, 700, 50, 3

5. Evaluate the following number

$3\overline{)495}$

A) 135 **B)** 131 Remaining 2 **C)** 165 **D)** 171 Remaining 2

6. Which one is a rectangle with two parallel sides?

A) 

B) 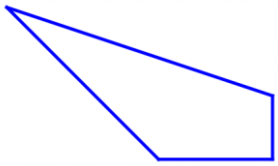

C) 

D) 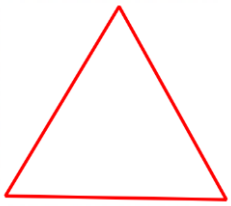

7. Veha used his rules to create this number model.

6, 11, 16, 21, 26

Which of the following has the same rule?

A) 2, 6, 10, 14, 18 **B) 3, 8, 13, 18, 23** **C) 10, 13, 16, 19, 22** **D) 2, 4, 8, 16, 32**

8. Which of the following can be represented to the figure below?

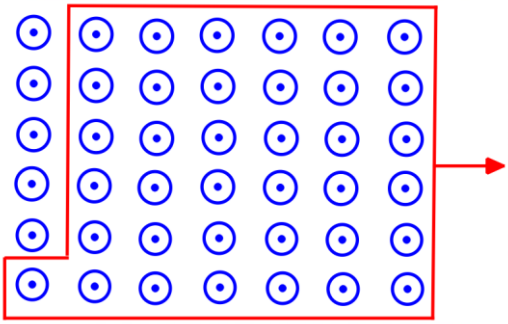

A) $37-5=n$ **B)** $42+5=n$ **C)** $37+42=n$ **D)** $42-37=n$

9. Reaksa bought 102 chairs for $ 3 162.00. How much does a chair cost?

A) $31.00 **B) $29.00** **C) $30.00** **D) $32.00**

10. Visal spends 10 minutes from home to school, knowing that in 1km takes 4 minutes. The distance from Visal's home to school is equal to:

A) 2.4 km **B) 2.6 km** **C) 2.5 km** **D) 2.7 km**

11. Ratha bought a motorbike for twelve thousand and forty-nine dollars. How much is this money written in numbers?

A) $12 004.49 **B) $12 049.00** **C) $12 149.00** **D) $12 490.00**

12. Which of the following is correct?

A) $42\,324 > 42\,342$ **B)** $3700 = 370$ **C)** $708 > 780$ **D)** $163\,406 < 163\,501$

13. Which point describes the position **0.25** on the number line?

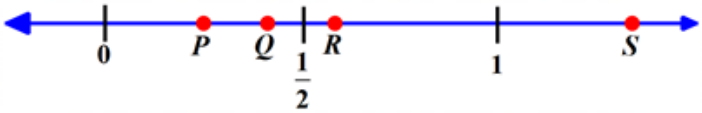

A) P **B) Q** **C) R** **D) S**

14. This is 1

Which of the following symbol makes the figure correct?

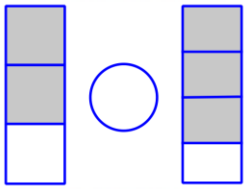

A) $>$ **B)** $<$ **C)** $=$ **D)** $\geq$

15. A phone company received about 400 calls from customers last week. At that rate, which of the following is the appropriate number of calls the company will receive in 17 weeks?

A) **2024** **B)** **5000** **C)** **6712** **D)** **6198**

16. For each shaded part from the pattern below is to represent a different fraction.

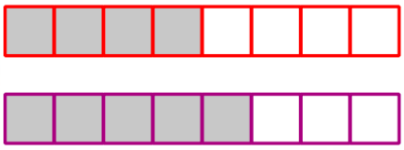

What is the sum of the fractions represented by the shaded part of the pattern?

A) $\frac{9}{8}$ **B)** $\frac{3}{8}$ **C)** $\frac{6}{8}$ **D)** $\frac{2}{8}$

17. Which of the following list has less value than $\frac{1}{2}$?

A) $\frac{3}{4}, \frac{5}{6}, \frac{7}{10}$ **B)** $\frac{1}{4}, \frac{5}{8}, \frac{6}{12}$ **C)** $\frac{2}{3}, \frac{2}{4}, \frac{2}{5}$ **D)** $\frac{1}{3}, \frac{1}{5}, \frac{1}{8}$

18. What is the angle shown below?

A) **60°** **B)** **152°** **C)** **168°** **D)** **101°**

19. Mr. Seiha ordered a pizza. His children ate $\frac{4}{8}$ of pizza and Mr. Seiha ate $\frac{2}{8}$ of pizza. The remaining slices are saved for later. Which equation can be used to represent the whole pizza?

A) $\frac{2}{8}+\frac{4}{8}+\frac{4}{8}=1$ **B)** $\frac{2}{8}+\frac{2}{8}+\frac{4}{8}=1$ **C)** $\frac{1}{8}+\frac{2}{8}+\frac{4}{8}=1$ **D)** $\frac{2}{8}+\frac{3}{8}+\frac{4}{8}=1$

20. Vanda has 6 pens. Ratha has 6 times of Vanda's pens. Veha has 4 times of Ratha's pens. Which equation can be used to determine the number of Veha's pens?

A) $6\times6\times4=$ ___?___ **B)** $6+6+4=$ ___?___ **C)** $6+6\times4=$ ___?___ **D)** $6\times6+4=$ ___?___

21. Which of the following letters best describes the right angle?

A) ***N*** **B)** ***Y*** **C)** ***X*** **D)** ***T***

22. Ratha saw the following items while shopping:

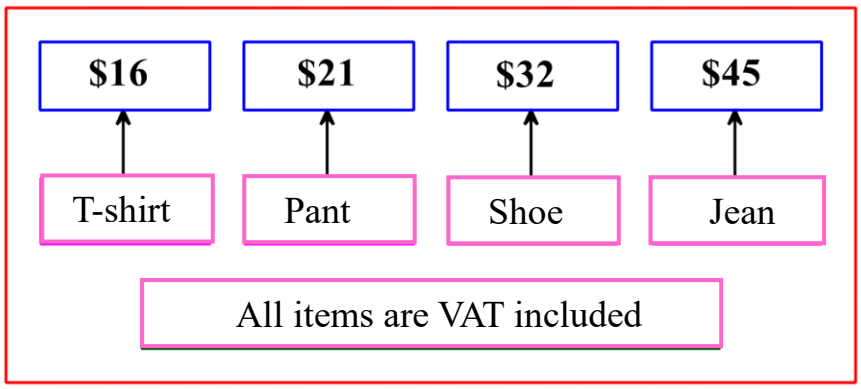

Ratha has $ 80. How much money does he have left over after spending on a jean and a T-shirt?

A) $34 **B) $19** **C) $62** **D) $54**

23. A teacher has 16 paper clips in one box and 48 paper clips in the other one. The teacher divides all the paper clips into 8 equal groups. How many paper clips in each group?

A) 8 **B) 6** **C) 24** **D) 64**

24. Veha and Seiha run in the same race competition. Veha finished the race 4 minutes before Seiha. If Seiha ends the race at 4:02 pm, what time does Veha finish the race?

A) 4:06 pm **B) 12:02** pm **C) 3:58** pm **D) 8:02** pm