IMEC.Online

Sample Question

Instructions

(1) There are 20 multiple choice questions, in which you need to choose a single choice: A, B, C or D.

(2) Time allowed is 50 minutes.

(3) For each correct answer, 4 marks will be awarded. For each incorrect answer, 1 mark will be deducted. For blank answer, no mark will be given.

Category

2

IMEC online

1) Solve 684 – 367 = ?

A) 317 **B**) 941
C) 99 **D**) 371

2) Find 34 – 43 + 22 – 31 + 19 = ?

A) 0 **B**) 4
C) 1 **D**) 8

3) If a = 5, b = – 4 then find
$ab \div 2 - a = ?$

A) 10 **B**) – 15
C) – 5 **D**) – 10

4) Find x.
67, 63, 59, 55, x, 47

A) 51 **B**) 49
C) 50 **D**) 53

5) Find area of the shaded region in m².

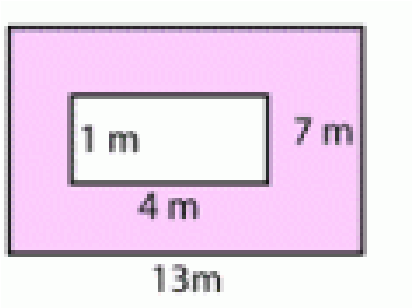

A) 90 **B**) 91
C) 85 **D**) 87

6) Evaluate:
2022 + 2002 – 2023 – 1478 =?

A) 2023 **B**) 1523
C) 523 **D**) 2022

7) Find the area of a rectangle in cm square.



A) 20 **B**) 84
C) 40 **D**) 78

8) Find:
$2 + 2 \div 2 + 2 \times 2 - 2 = ?$

A) 3 **B**) 14
C) 5 **D**) 8

9) Solve:
$(12 \div 3) \times 5 + 19 - (12 - 8) \times 4 = ?$

A) 23 **B**) 14
C) 25 **D**) 18

10) Find:

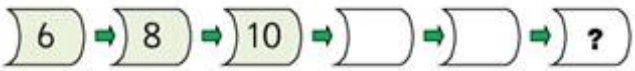

A) 20 **B**) 14
C) 16 **D**) 18

11) Find:

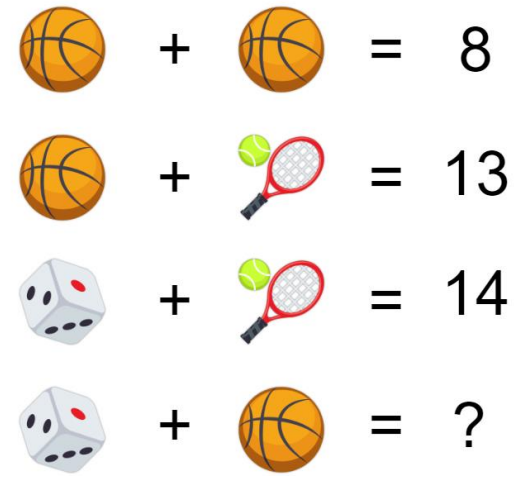

A) 12 **B**) 19
C) 9 **D**) 8

12) Solve:

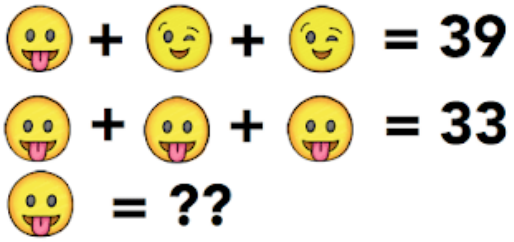

A) 14 **B**) 11
C) 12 **D**) 22

13) Find next pattern.

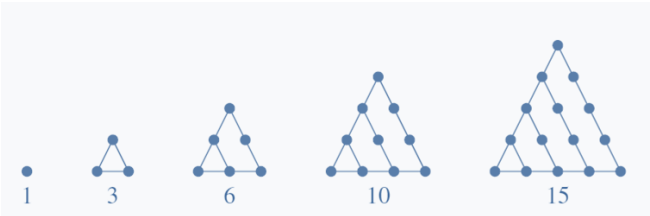

A) 21 **B**) 31
C) 25 **D**) 38

14) How many squares in figure 4?

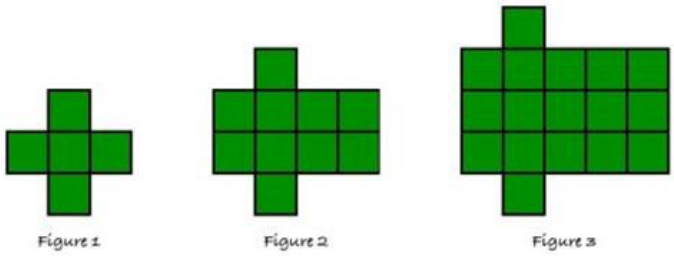

A) 26 **B**) 44
C) 35 **D**) 38

15) How many angles does this figure have?

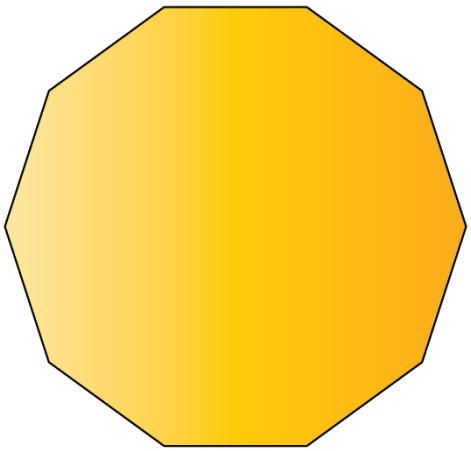

A) 10 **B**) 11
C) 8 **D**) 12

16) Add number of faces and vertices of this figure.



A) 10 **B**) 14
C) 8 **D**) 18

17) Find:



A) 37 **B**) 39
C) 52 **D**) 26

18) Find:

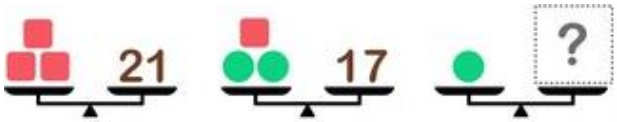

A) 7 **B**) 10
C) 3 **D**) 5

19) Find:

19 – 20 + 23 + 36 – 35 + 36 – 27 =?

A) 30 **B**) 32
C) 35 **D**) 0

20) Solve:
3333 + 888 – 2023 – 1777 = ?

A) 412 **B**) 421
C) 124 **D**) 2023