1) Geto made a cube by gluing some shapes together.

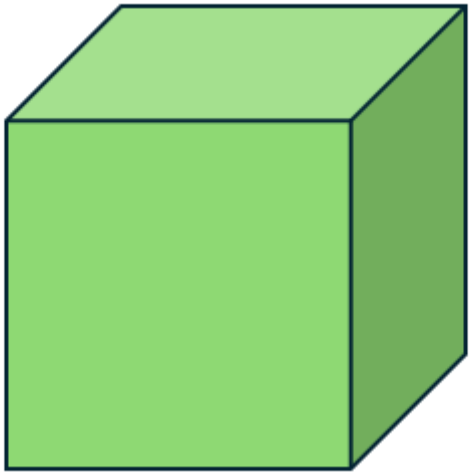

Which shape did Geto use?



A.

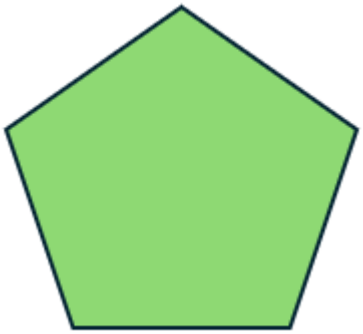

B.



C.

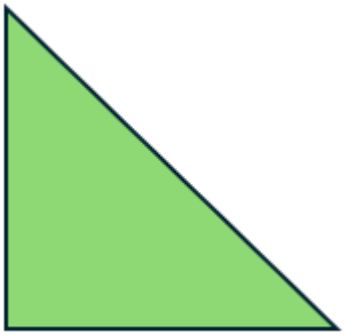

D.

2) Benny’s mother made a sandwich from square bread.

She then cut it twice:

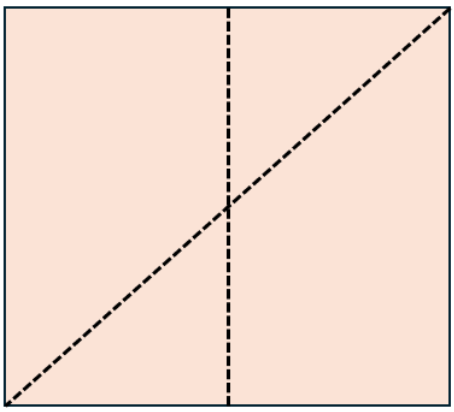

What are the shapes of the pieces?

A.

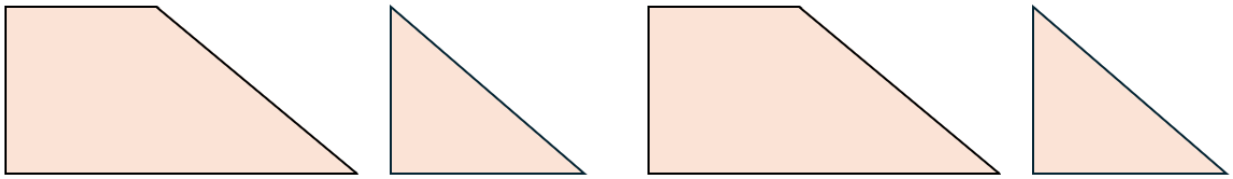

B.

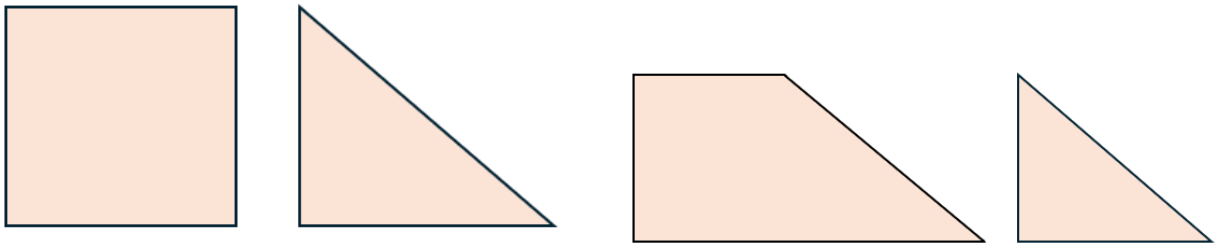

C.

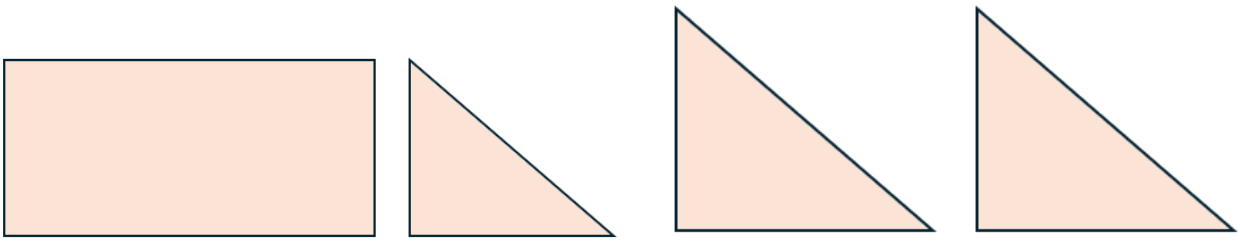

D.

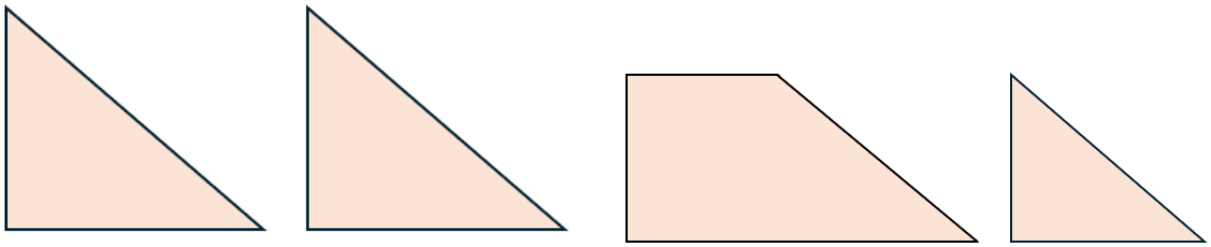

3) Don plays a puzzle game. He must fit 2 pieces together to form this shape.

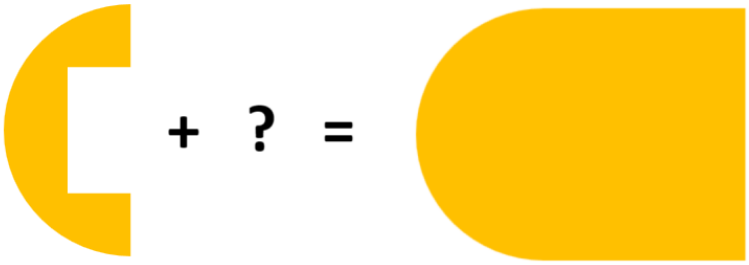

Which piece should he choose to fit?

A.

B.

C.

D.

4) Johnny drew a pattern of shapes:

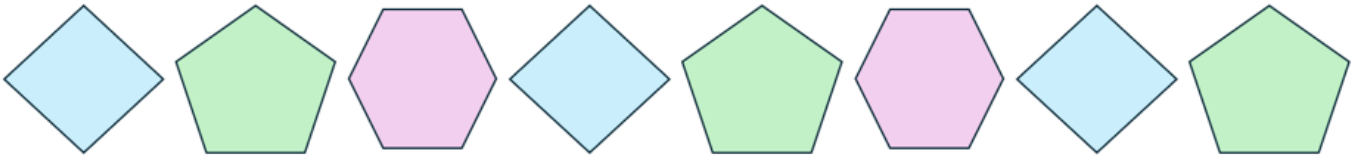

Which is the next shape Johnny should draw?

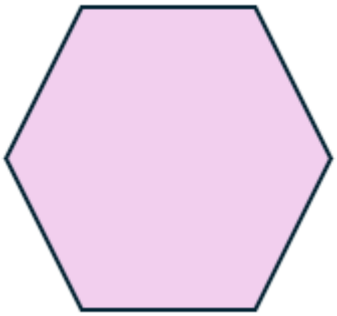

A.

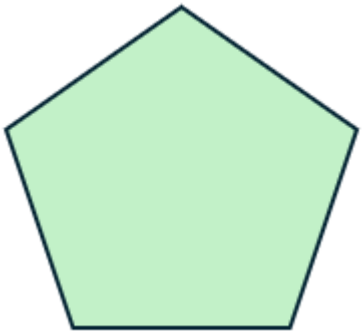

B.

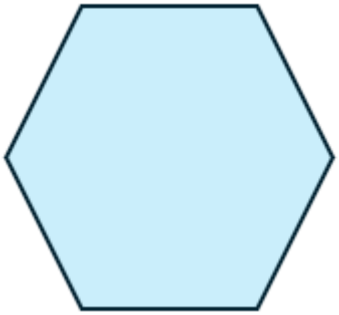

C.



D.

5) Every year the students will color their classroom's wall. Here is how they colored the wall in the last 3 years.

What will be the color next year?

A.

B.

C.

D.

6) Mr Jogoat gives his class cookies at the end of every month.

In January, everyone got 1 cookie each. In February, everyone got 3 cookies each. In March, everyone got 5 cookies each. How many cookies will everyone get in April?

A. 7
B. 5
C. 6
D. 4

7) Alex wants to make 3 swords in Minecraft. 1 stick and 2 diamonds will make 1 sword.

How many diamonds does he need?

A. 

B. 

C. 

D.

8) Penny brought $10 to school.

She paid $3 for a notebook. Then she paid $2 for a pen.

How much money does she have left?

A. $5
B. $7
C. $8
D. $2

9) Nina wants to bake 20 pizza rolls. She has baked these pizza rolls so far:

How many more should Nina bake?

A. 3
B. 6
C. 1
D. 8

10) Hermione starts school at Hogwarts at 9am.

She has Spells class for 2 hours. Then she has lunch break for 1 hour. Finally she has Potions class for 3 hours. What time does Hermione finish school?



A. 3pm
B. 2pm
C. 15am
D. 6am

11) The turtles go to the dojo to start training at 9am. They take half an hour to travel.

Donatello leaves at half past 8. Leonardo leaves at 45 minutes past 8. Raphael leaves at 8 am. Michelangelo leaves at 20 minutes past 8. Who will be late?

A. Leonardo
B. Raphael
C. Donatello
D. Michelangelo

12) Andy and friends stand on a weighing scale.

Who is the heaviest?

A. Jenny:

B. Tom:

C. Andy:

D. Mina:

13) Peter wants to feed his dogs. Each dog gets 2 treats.

How many treats will he give?

A. 14
B. 7
C. 2
D. 9

14) Tina put a clock on the wall. But the clock broke and stopped moving. After it broke the clock looked like this:

What time did the clock break?

A. 10.15
B. 3.10
C. 10.03
D. 11.15

15) Ben is playing a board game.

He throws five dice. He counts the dots on top as the score:

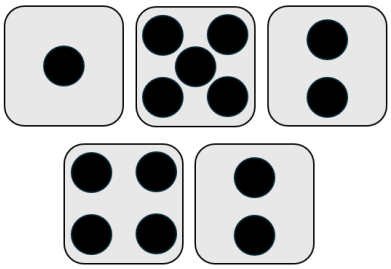

How many dice scored more than 3?

A. 2
B. 5
C. 9
D. 3

16) John, Linda and Sam will use eggs to bake a cake.

John has 2 more eggs than Linda. Linda has twice as many eggs as Sam. Sam has 3 eggs. How many eggs does John have?

A. 8
B. 5
C. 10
D. 6

17) Bob owns a farm with 3 cows and 2 chickens.



Bob wants to buy shoes for all of his animals. Cows need 4 shoes and chickens need 2 shoes. How many shoes does Bob need to buy?

A. 16
B. 5
C. 10
D. 12

18) We use a ruler to measure the length of things. A ruler was used to measure a pencil's length:

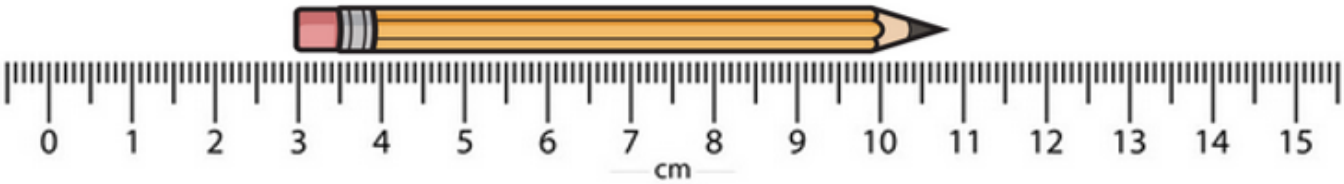

How long is the pencil?

A. 8cm
B. 11cm
C. 3cm
D. 5cm

19) Tom, Jerry and Spike played soccer. They kicked the ball into the window. It broke!

Tom said: "Jerry broke the window." Jerry said: "Spike broke the window." Spike the dog said: "Both Tom and Jerry are lying." You know that only Spike tells the truth. Who broke the window?

A. Tom
B. Jerry
C. Spike
D. We don't know

20) Different shapes have different numbers of sides. The number of sides is how many lines we need to draw the shape. A square has 4 sides:



Pick the shape with the most sides!

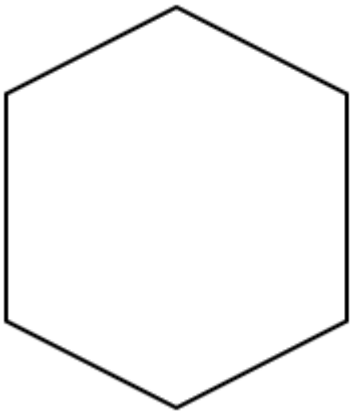

A.

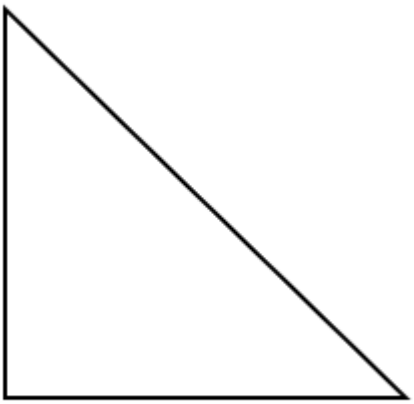

B.

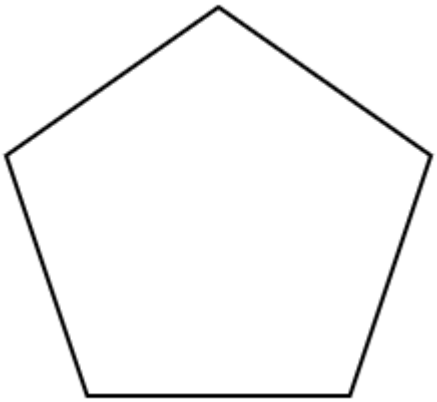

C.

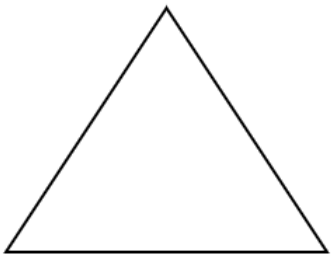

D.