1) Sam's class made some 3D figures during their art lesson. Here are some of the 3D figures they made:

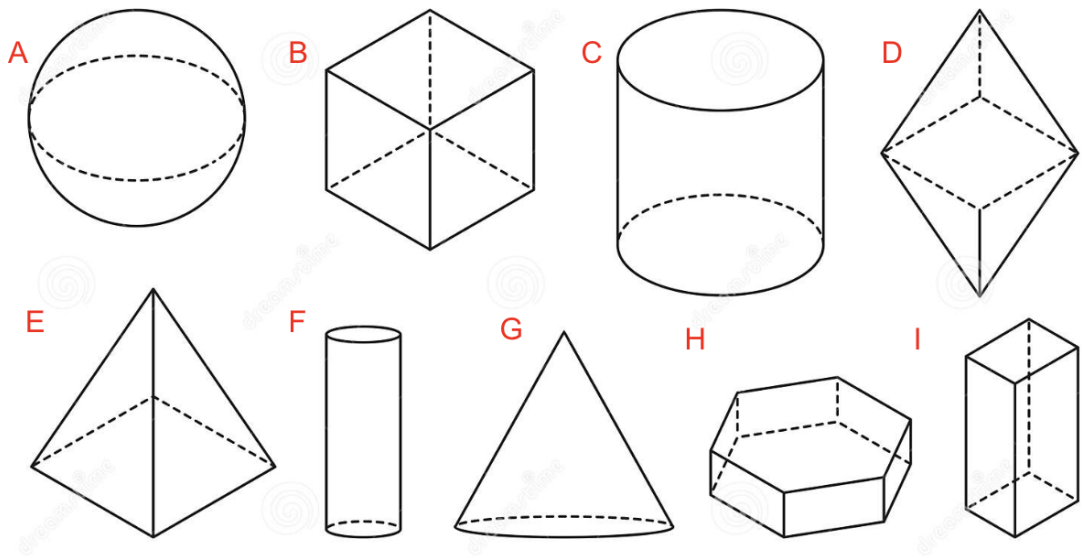

Which figures on the picture have more than 7 corners?

A. B, H and I
B. A, C and F
C. D and E
D. F, G and I

2)

Bees mature very fast. It takes 18 days for a baby bee to become an adult bee and start collecting pollen.

During these 18 days the bee is working very hard.

In the first 4 days, the bee is cleaning the honeycomb.

In the next 3 days, it cooks food for other bees.

After that, the baby bee is helping with the honey storage.

In the last 5 days the baby bee is building new rooms in the honeycomb.



How many days is the baby bee helping with the honey storage?

A. 6 days
B. 8 days
C. 5 days
D. 4 days

3) Rugby players must be strong and fast to be good at their game.

A rugby player weighs 95 kilograms. 1 kilogram is equal to 2.2 pounds. What is the player's weight in pounds?

A. 209 pounds
B. 207 pounds
C. 211 pounds
D. 210 pounds

4) In a game of cricket, one inning is a period of a cricket match during which a team takes its turn to bat. A cricket player has a batting average of 35 runs per inning.

If the player bats 5 innings in a series, how many total runs can they expect to score?

A. 175 runs
B. 150 runs
C. 215 runs
D. 170 runs

5) Anna takes 3 minutes to climb 1 flight of stairs. There is 1 flight of stairs between two levels of a building. If a building has 12 levels, how long will Anna take to climb to the top, starting from level 1?



A. 15 minutes
B. 36 minutes
C. 33 minutes
D. 30 minutes

6) Sally spends $1 on making a bento, which she sells for $4.50. Everyday, she makes 50 bentos. However, today is a bad day and she only sold 30 bentos, with 20 bentos left unsold. How much is Sally's total profit for the day?

A. $50
B. $85
C. $105
D. $135

7)

Elsa from Frozen discovered a new type of snowflake that is a hexagon. She is told that the outside perimeter of the snowflake measures 72mm. How long is one side of the snowflake?

A. 12mm
B. 6mm
C. 18mm
D. 24mm

8)

Miles Morales is a superhero who became Spider-Man after getting bitten by a special spider. Miles is a school student and he still has to attend class while saving the city.

Every morning, he goes to school by taking the school bus and comes back using his spider superpowers. The total time taken for the round trip in both directions is 1 hour and 30 minutes. If he were to go both directions using his superpowers, it would only take 30 minutes.

How much time would he spend if he were to go both directions by bus?

A. 2 hours and 30 minutes
B. 1 hour
C. 2 hours
D. 1 hour and 15 minutes

9) A chef can cook 3 plates of spaghetti in 27 minutes. At this rate, how long does the chef need to take to cook 11 plates of spaghetti?

A. 1h 39 minutes
B. 1h 49 minutes
C. 27 minutes
D. 54 minutes

10)

Zere went to United States for the holiday. She visited New York, Boston and Los Angeles. She bought some toy gifts for her classmates at the StemCo toy shop:

Here are the prices for the toys.

Prices at StemCo toy shop

Banana	3$
Cactus	2$
Duck	4$
Dog	4$
Flamingo	7$
Lemon	1$
Kangaroo	6$
Lego Policeman	10$
Spiderman	12$
Zebra	7$

What is the total price for Zere's gifts?

A. $46
B. $28
C. $42
D. $30

11) Baby Yoda is starting to learn about shapes. You give him some descriptions of the shape of your dinner plate.

- It has 4 sides in total
- It has 2 pairs of parallel sides
- Not all of its sides are equal in length

Which shape could it be?

A.

B.

C.

D.

12) Bob is going to watch the movie "Avengers: Endgame" at home with all his friends. Before that, he wants to watch all previous movies in the "Avengers" series, starting from "The Avengers". The duration of each movie is shown below:

Movie	Duration of Movie
The Avengers	2h 25min
Avengers: Age of Ultron	2h 20min
Avengers: Infinity War	2h 40min

Bob wants to start watching "Avengers: Endgame" at 7.45pm. When should he start watching "The Avengers"?

A. 12.20pm
B. 1.20pm
C. 12.45pm
D. 1.45pm

13)

The school administration asked some primary school students how they come to school.

They wanted to know if students walk, ride a bike, take a bus, or get a ride from their parents.

This table shows what the students said:

	Walk	**Bike**	**Bus**	**Car**	**Total**
1st grade	12	8	15	46	81
2nd grade	10	13	16	35	74
3rd grade	12	17	25	29	83
4th grade	12	8	33	25	78
Total	46	46	89	135	316

Which of these statements about the survey results is false?

A. 46 students in 1st grade don't use the bus
B. There are 78 students in 4th grade
C. 135 students in total get a ride from their parents
D. 39 students in 2nd grade don't get a ride from their parents

14) Johnny is travelling back to his hometown on a long train journey, to visit his family for the New Year.

He boards the train on 29 December at 9.00am. The train ride will take 65 hours. Will he manage to arrive at his hometown before the New Year (1 Jan, 12.00am)?

A. No, he will reach 2 hours late
B. No, he will reach 4 hours late
C. Yes, he will reach 1 hour early
D. Yes, he will reach 2 hours early

15) A gift exchange is a common and popular practice during Christmas in many countries. It is often the part of the festival that most people look forward to. Anna goes to buy Christmas presents for her friends. She wants to buy them a bag of chocolate chip cookies each. The bags of cookies cost $5 each, and for every 3 bags bought, she will get 1 more bag for free.

Anna has $42. How many bags of cookies can she get?

A. 10
B. 12

C. 9
D. 8

16) Anna studies at a school that is 2km away from home. She usually takes a bus to and from school, which costs about $1.09 per trip. But if she walks, she will save the money.

This week, she wishes to save $9.90 to buy a birthday present for her friend. To save enough money, how many times should she walk instead of taking the bus this week?

A. 10
B. 9
C. 8
D. 11

17) Every time Anna goes to a fast-food restaurant, she orders a meal that costs $5. For every $2 spent at the restaurant, Anna will be awarded 1 point through a loyalty programme. She will not get partial points for a remaining unawarded amount. Every 15 points will allow Anna to redeem a free chocolate ice cream cone.

How many times does Anna have to go to the fast-food restaurant in order to be able to redeem 1 chocolate ice cream cone?

A. 8
B. 15
C. 7
D. 12

18) Anna’s monthly salary as an administrative assistant is $2800. Her monthly expenses add up to $1300, and she saves the remaining sum.

How much money would Anna save in a year, assuming that she continues to make and spend the same amount of money every month?

A. $18000
B. $15600
C. $33600
D. $19000

19) Mandy loves to eat candy. Every day, she eats 10 candies.

However, her doctor tells her it is not healthy to eat so many candies. So she decided to eat less candy. On Monday, she ate 1 less candy than normal. On Tuesday, she ate 1 less candy than Monday. On Wednesday, she ate 1 less candy than Tuesday. This pattern continued until Sunday. How many candies did she eat from Monday to Sunday?

A. 42
B. 45
C. 63
D. 49

20) Min Min is a tea lover. She brews flavorful tea as a hobby.

One day, Min Min brewed 1L of tea. She then poured it into 150mL cups for her friends. How many cups of tea can she fill?

A. 6
B. 7
C. 15
D. 5